QUESTION 1 For each of the following multiple-choice questions circle the (one) most appropriate answer. Scratch space (if required) is provided on the opposite page, but will not be marked. Each question is of equal value. %

1.a) A pictorial sketch is best done using:

(i) blank drawing paper.
(ii) square grid paper.
(iii) isometric grid paper.
(iv) a triangle.

1.b) Which of the following items below is typically **not** a tool used in technical sketching?

(i) a pencil.
(ii) a triangle.
(iii) an eraser.
(iv) a napkin.

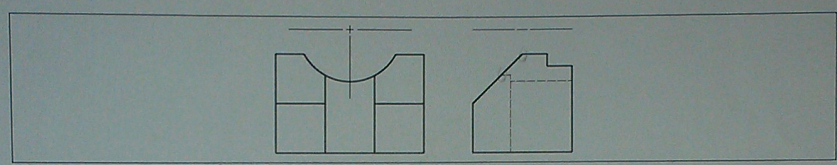

1.c) For the multiview shown above, a third orthographic projection is:

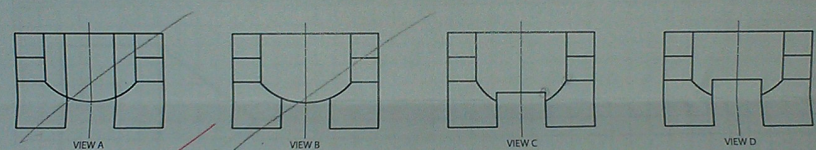

(i) View A
(ii) View B
(iii) View C
(iv) View D

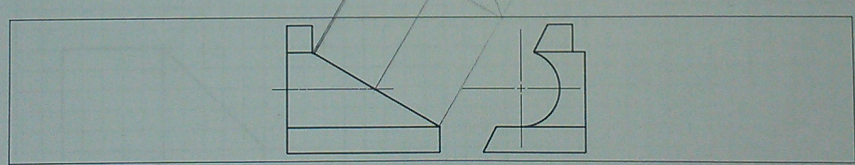

1.d) For the multiview shown above, a partial auxiliary view would be drawn (ignoring fold lines) as:

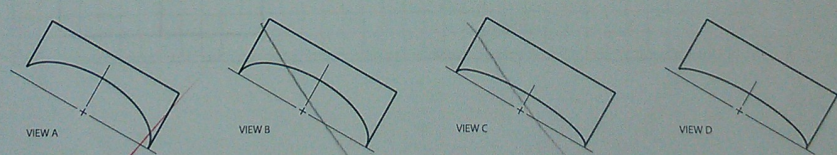

(i) View A
(ii) View B
(iii) View C
(iv) View D

1.0

Question 2 For the incomplete multiview drawings shown below, add the missing lines, using appropriate line types. Use the minimum number of lines necessary to correct the drawings. [%]

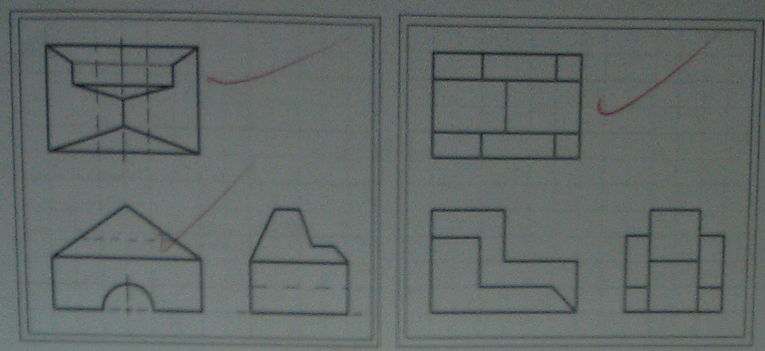

1.5

Question 3 For the object illustrated below, draw a partial auxiliary view of face A within the frame below. [%]

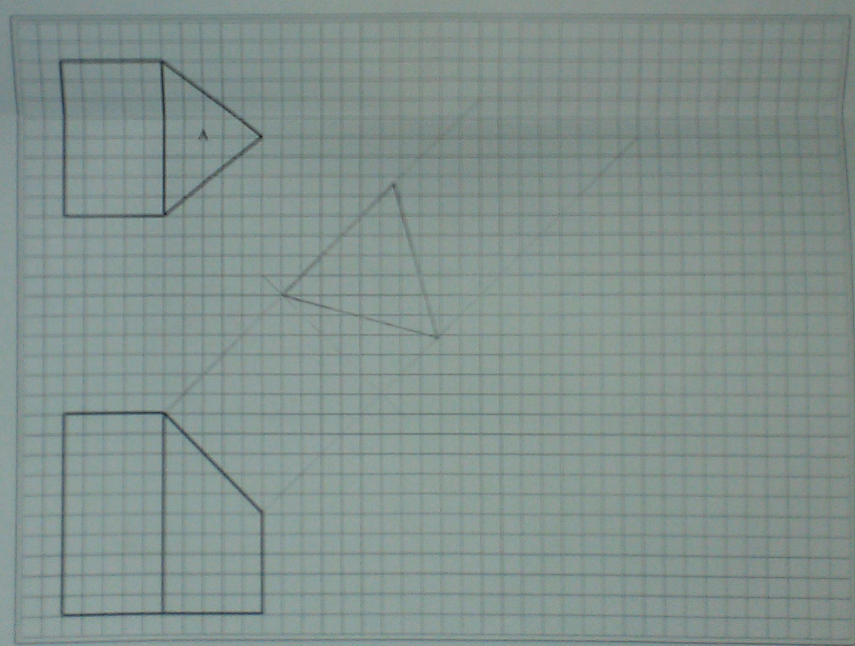

1.5

Question 4 For the part illustrated below, complete a multiview drawing (within the frame below) using the minimum number of views to completely describe the object shown. Use common line and drawing conventions. Indicate the scale used, but do not add dimensions. Remove all construction lines. %

4.25

ROTATE PAGE

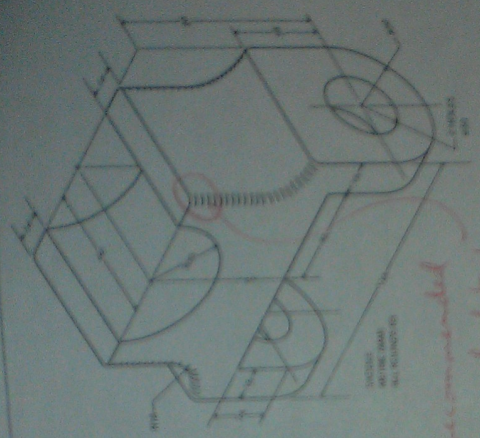

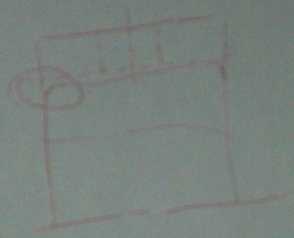

be more recommended to show round detail



Scale 1:1

No hidden lines

8.25